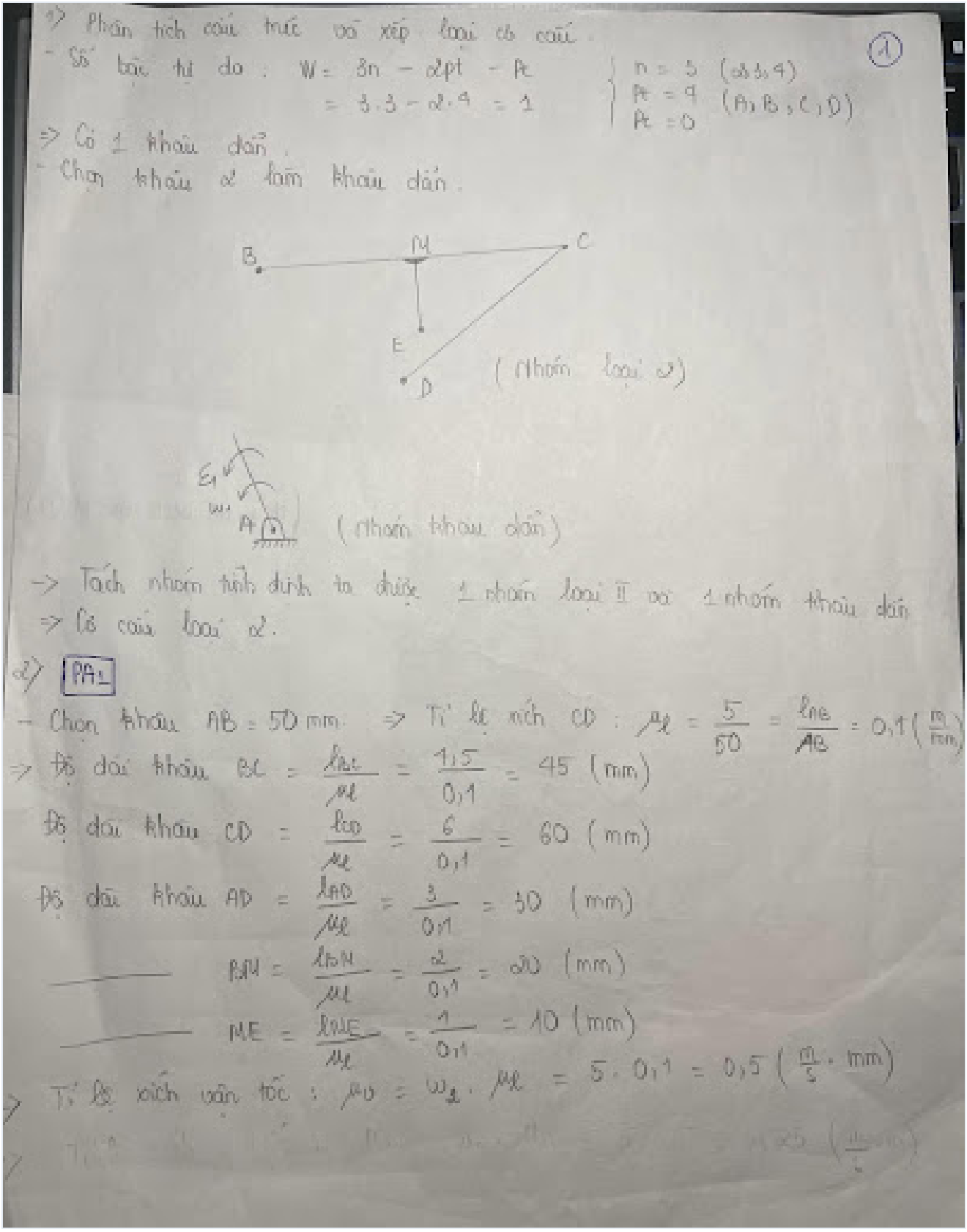
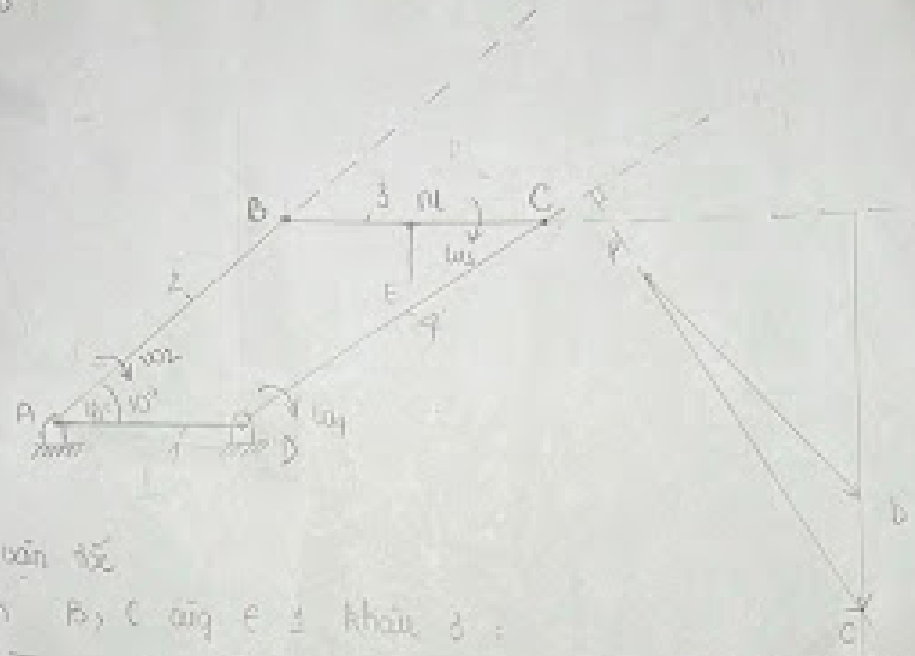
Bài Tập Cơ Học



- Vẽ lược đồ



② Bài toán vận tốc

- Xét 2 điểm B, C cùng e 1 khâu 3 :

$$\overline{v_C} = \overline{v_B} + \overline{v_{CB}}$$

$\overline{v_C}$	$\overline{v_B}$	$\overline{v_{CB}}$
$\perp CD$	$\perp AB$	$\perp BC$
// theo ω_1	theo ω_1	x (theo ω_3)
x $\omega_1 . l_{CD}$	$= \omega_1 . l_{AB}$	x ($= \omega_3 . l_{BC}$)
	$= 5 . 0,5$	
	$= 2,5$ (m/s)	

(Hoạ đồ vecto cho pt ②)

- Vẽ hoạ đồ cho pt ① :

$$\overline{pc} = \overline{pb} + \overline{bc}$$

$\overline{pc}$	$\overline{pb}$	$\overline{bc}$
$\perp CD$	$\perp AB$	$\perp BC$
// (theo ω_1)	theo ω_1	x (theo ω_3)
x ($= \frac{\omega_1 . l_{CD}}{\mu_v}$)	$= \frac{v_B}{\mu_v}$	x ($\frac{\omega_3 . l_{BC}}{\mu_v}$)
	$= \frac{2,5}{0,5} = 50$ (mm)	

⇒ Từ hoạ đồ vận tốc cho pt ①, ta đo được :

+ $\overline{bc} = 19$ (mm) ⇒ $v_{CB} = \mu_v . bc = 0,5 . 19 = 9,5$ (m/s)

⇒ $\omega_3 = \frac{v_{CB}}{l_{BC}} = \frac{9,5}{4,5} = 2,11$ (rad/s)

+ $\overline{pc} = 65,5$ (mm) ⇒ $v_C = \mu_v . pc = 0,5 . 65,5 = 32,75$ (m/s)

⇒ $\omega_4 = \frac{v_C}{l_{CD}} = \frac{32,75}{6} = 5,46$ (rad/s)

- Vận tốc điểm M: $\overrightarrow{v_M} = \overrightarrow{v_B} + \overrightarrow{v_{MB}}$ (2) (3)

$\overrightarrow{v_M}$: $\perp BM$; $\times$; $\times$

$\overrightarrow{v_B}$: $\perp AB$; theo ω_2; $\omega_2 \cdot l_{AB} = 5 \cdot 5 = 25$ (m/s)

$\overrightarrow{v_{MB}}$: $\perp MB$; theo ω_3; $\omega_3 \cdot l_{MB} = 2{,}11 \cdot 2 = 4{,}22$ (m/s)

$\Rightarrow v_M = 25 + 4{,}22 = 29{,}22$ (m/s)

- Vận tốc điểm E: $\overrightarrow{v_E} = \overrightarrow{v_M} + \overrightarrow{v_{EM}}$

$\overrightarrow{v_E}$: $\perp ME$; $\times$; $\times$

$\overrightarrow{v_M}$: $\perp BM$; $\times$; $= 29{,}22$ (m/s)

$\overrightarrow{v_{EM}}$: $\perp ME$; $\times$; $\omega_3 \cdot l_{ME} = 2{,}11 \cdot 1 = 2{,}11$ (m/s)

$\Rightarrow v_E = 29{,}22 + 2{,}11 = 31{,}33$ (m/s)

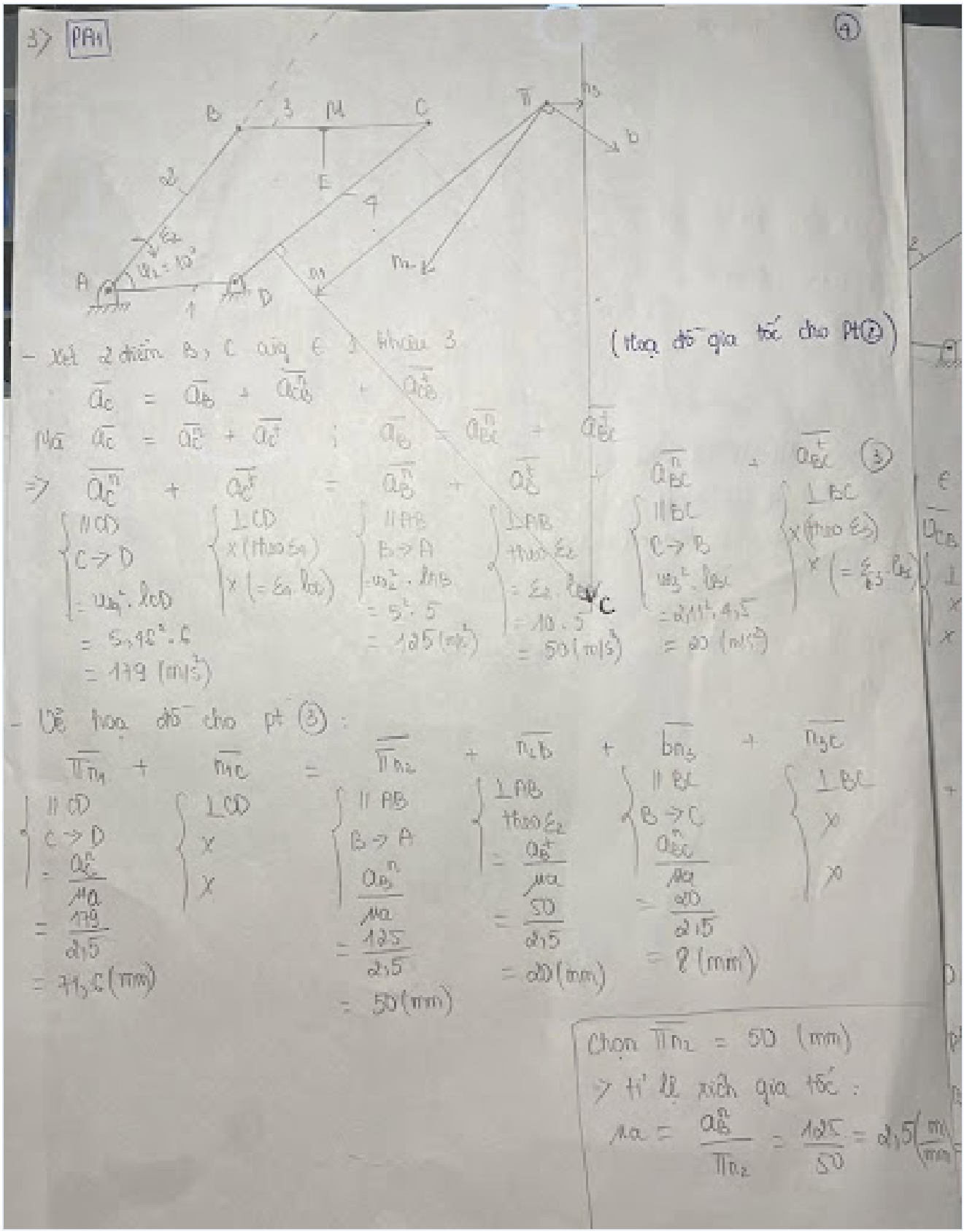
Vậy: $\omega_3 = 2{,}11$ (s^{-1}); $\omega_4 = 5{,}96$ (rad/s)

$v_B = 25$ (m/s)

$v_C = 32{,}75$ (m/s)

$v_M = 29{,}22$ (m/s)

$v_E = 31{,}33$ (m/s)


3) PA1
(9)
B
3
M
C
E
q
A
D
1
2
n3
n2
b
(thoa đồ gia tốc cho PT②)
- Xét 2 điểm B, C cùng E là khâu 3
$\overrightarrow{a_C} = \overrightarrow{a_B} + \overrightarrow{a_{CB}^n} + \overrightarrow{a_{CB}^t}$
Mà $\overrightarrow{a_C} = \overrightarrow{a_E^n} + \overrightarrow{a_C^t}$; $\overrightarrow{a_B} = \overrightarrow{a_{BC}^n} + \overrightarrow{a_{BC}^t}$
$\Rightarrow \overrightarrow{a_C^n} + \overrightarrow{a_C^t} = \overrightarrow{a_B^n} + \overrightarrow{a_B^t} + \overrightarrow{a_{BC}^n} + \overrightarrow{a_{BC}^t}$ ③
// CD, C→D, $= \omega_{n_3}^2 . l_{CD} = 5,12^2 . 6 = 179\ (m/s^2)$
⊥ CD, x (theo ε3), x (= ε3 . lBC)
// AB, B→A, $= \omega_2^2 . l_{AB} = 5^2 . 5 = 125\ (m/s^2)$
⊥ AB, theo ε2, $= \varepsilon_2 . l_{BC} = 10 . 5 = 50\ (m/s^2)$
// BC, C→B, $= \omega_3^2 . l_{BC} = 2,15^2 . 4,5 = 20\ (m/s^2)$
⊥ BC, x (theo ε3), x (= ε3 . lBC)
- Vẽ thoa đồ cho pt ③:
$\overrightarrow{\pi n_4} + \overrightarrow{n_4 c} = \overrightarrow{\pi n_2} + \overrightarrow{n_2 b} + \overrightarrow{b n_3} + \overrightarrow{n_3 c}$
// CD, C→D, $= \frac{a_C^n}{\mu a} = \frac{179}{2,15} = 71,2\ (mm)$
⊥ CD, x, x
// AB, B→A, $\frac{a_B^n}{\mu a} = \frac{125}{2,15} = 50\ (mm)$
⊥ AB, theo ε2, $= \frac{a_B^t}{\mu a} = \frac{50}{2,15} = 20\ (mm)$
// BC, C→B, $\frac{a_{BC}^n}{\mu a} = \frac{20}{2,15} = 9\ (mm)$
⊥ BC, x, x
Chọn $\overline{\pi n_2} = 50\ (mm)$
⇒ tỉ lệ xích gia tốc:
$\mu a = \frac{a_B^n}{\pi n_2} = \frac{125}{50} = 2,5\ (\frac{m/s^2}{mm})$

- Từ hoạ đồ gia tốc pt (3) ta đo được :

+) $n_{3C} = 119$ (mm) $\Rightarrow a^t_{BC} = \mu_a \cdot n_{3C} = 119 \cdot 2,5 = 297,5$ (m/s^2)

có phương $\perp$ BC, chiều $\wedge$ theo ε_3 $\Rightarrow$ ε_3 quay cùng chiều kim đồng hồ.

+) $n_{1C} = 97$ (mm) $\Rightarrow a^t_C = \mu_a \cdot n_{1C} = 2,5 \cdot 97 = 242,5$ (m/s^2)

$\Rightarrow \varepsilon_3 = \dfrac{a^t_{BC}}{l_{BC}} = \dfrac{297,5}{4,5} = 53,9$ (s^{-2})

$\Rightarrow \varepsilon_4 = \dfrac{a^t_C}{l_{CD}} = \dfrac{242,5}{6} = 40,4$ (s^{-2})

+) Gia tốc điểm M: $\overline{a_M} = \overline{a^n_B} + \overline{a^t_B} + \overline{a^n_{MB}} + \overline{a^t_{MB}}$

$\overline{a^n_B}$: // AB, B $\to$ A, $= 125$ (m/s^2)

$\overline{a^t_B}$: $\perp$ AB, theo ε_2, $= 50$ (m/s^2)

$\overline{a^n_{MB}}$: // MB, M $\to$ B, $= \omega_3^2 \cdot l_{MB} = 2,11^2 \cdot 2 = 8,9$ (m/s^2)

$\overline{a^t_{MB}}$: $\perp$ MB, theo ε_3, $= \varepsilon_3 \cdot l_{MB} = 53,9 \cdot 2 = 107,8$ (m/s^2)

$\Rightarrow a_M = 125 + 50 + 8,9 + 107,8 = 291,7$ (m/s^2)

+) Gia tốc điểm E:

$\overline{a_E} = \overline{a^n_E} + \overline{a^t_E}$

$\overline{a^n_E}$: // ME, M $\to$ E, $\omega_3^2 \cdot l_{ME} = 2,11^2 \cdot 1 = 4,52$ (m/s^2)

$\overline{a^t_E}$: $\perp$ ME, theo ε_3, $\varepsilon_3 \cdot l_{ME} = 53,9$ (m/s^2)

$\Rightarrow a_E = 4,521 + 53,9 = 52,35021$ (m/s^2)